107年第三次交通部航海人員測驗【301】一等船副【000003】船舶通訊與航海英文

(D) 1. 摩爾斯碼信號「··— (點、點、劃)」，代表何信號？
A. Delta
B. India
C. Juliett
D. Uniform

(B) 2. 摩爾斯碼信號「·(點)」，代表何信號？
A. Oscar
B. Echo
C. Sierra
D. Tango

(A) 3. 依照我國中央氣象局的觀測，颱風中心附近最大風速達每小時50浬，則屬何種颱風？
A. 輕度颱風
B. 中度颱風
C. 強烈颱風
D. 超級颱風

(A) 4. Choose one of the following sentences for expressing ”Engine on half power ahead - steer 182 degr. port side.”
A. “Half ahead - port - steer one eight two.”
B. “Half power ahead - port - steer one eight two.”
C. “Half ahead - port -steer one hundred eighty-two degrees.”
D. “Half speed ahead - port - steer one hundred eighty-two degrees.”

(D) 5. What’s the part name of life boat that marked “A”?

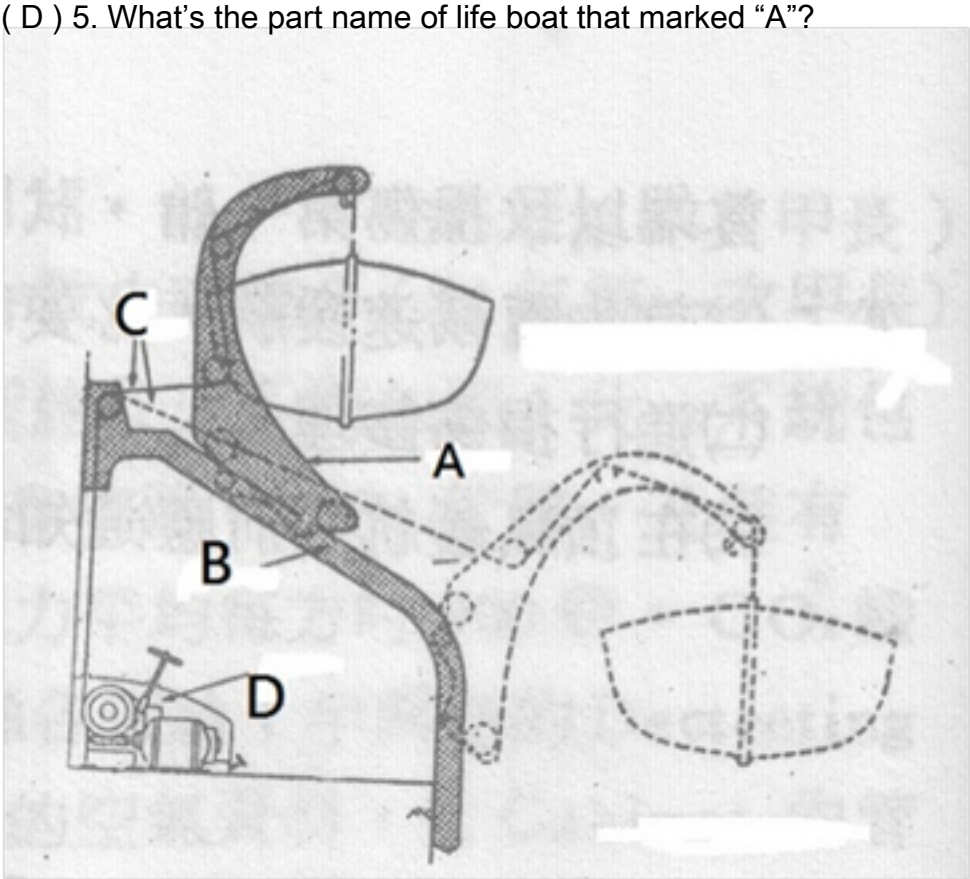

A. Winch
B. Fall
C. Skid
D. Cradle

(A) 6. Which of the following information need not to be recorded in Oil Record Book Part 1?
A. Replenishment of lubricating oil in drums.
B. Ballasting or cleaning of oil fuel tanks.
C. Collection and disposal of oil residue.
D. Discharge of dirty ballast.

(D) 7. You serve on a gas carrier and slip tube was used for gauging liquid cargo level. What is the slip tube gauge classed?
A. Indirect devices.
B. Closed devices – penetrate the tank.
C. Closed devices – not penetrate the tank.
D. Restricted devices.

(D) 8. What kind of international code ensign shall be hoisted if dangerous goods is loaded and berthed at port?
A. QUEBEC
B. PAPA
C. HOTEL
D. BRAVO

(A) 9. Beaufort scale number indicated 7, the duty officer should write down in ship log book by:
A. Near Gale
B. Fresh breeze
C. Strong Gale
D. Moderate breeze

(A) 10. 軍艦準備駛進基隆港，應如何處理？
A. 比照一般商船申請，由VTS塔台核准排序進入
B. 比照一般商船申請，任何情況下，由VTS塔台優先核准進入
C. 優先申請，由VTS塔台優先核准進入
D. 不需申請，隨時均可進入

(C) 11. By SMCP, choose one of the following sentences for expressing ”Let go all but the essential lines.”
A. “Single up springs!”
B. “Let go fore and aft!”
C. “Single up fore and aft!”
D. “Stand by fore and aft!

(D) 12. By SMCP, choose one of the following sentences for expressing ”Cable Layer Taichung is restricted in her manoeuvrability. All vessels must stay at a safe distance.”
A. “Information: Cable Layer Taichung in position _____ is manoeuvring with difficulty. Give a wide berth”.
B. “Information: restricted vessel Taichung in position _____ All vessels: keep clear”.
C. “Information: Cable Layer Taichung in position _____ is constrained. Wide berth requested”.
D. “Information: hampered vessel Taichung in position _____ Wide berth requested”.

(D) 13. 若於夜間使用燈號時，指導有遇險人員或船員的小艇，且此處登岸極度危險，較佳登岸地點在遇險船的右側，則先以白燈一盞作水平運動，然後將白燈置放於地上，並手持何種顏色燈走向右側？
A. 黃燈
B. 綠燈

C. 紅燈
D. 另一盞白燈

(C) 14. 摩爾斯碼信號「···－－(點、點、點、劃、劃)」，代表何信號？
A. 32
B. 8
C. 3
D. 2

(B) 15. 於航行電傳系統(NAVTEX)中，香港發射台之代碼，下列何者正確？
A. G
B. L
C. P
D. Q

(B) 16. 船舶通信依「國際信號規則(ICS)」之規定，每一「單字母(single letter) 」均代表一完整的信號(signal)。試問「I am altering my course to port」，是下列何「單字母」之信號？
A. C
B. I
C. L
D. R

(A) 17. 圖示信號旗所代表之字母依規定全名(code word)是: 
A. PANTAFIVE
B. SETTESEVEN
C. NOVENINE
D. DECIMAL

(B) 18. A: We ought to stop at least at No.2 and No.3 Hatches. The bags are getting badly wet all over. Stop right away! We'll close the hatches as soon as you stop. B: All right. Question: What shall we do after the stevedores stop working?
A. Open the hatches.
B. Close the hatches.
C. Adjust the derrick.
D. Have a rest.

(B) 19. Potable tanks and dangerous cargo spaces onboard vessels are the _____ and the entry is only permitted for authorized personnel according to principles of the ISPS Code.
A. hazardous areas
B. restricted areas
C. recreational areas
D. catering areas

(C) 20. 「漁船」正確的Logbook英文用詞為下列何者？
A. Finish vessel
B. Fish vessel
C. Fishing vessel
D. Fisher vessel

(B) 21. An area which cannot be scanned by the ship's radar because it is shielded by parts of its

superstructure, mast, etc. We call it is:
A. Blind secretary
B. Blind sector
C. Shading area
D. Shackle area

(D) 22. What ship below shall be provided with an oil filtering equipment with automatic stop and also an alarm when the oil content exceeds 15 ppm as per MARPOL Annex I?
A. Any ship of 400 gross tonnage and above but lees than 1,000 gross tonnage.
B. Any ship of 1,000 gross tonnage and above but less than 5,000 gross tonnage.
C. Any ship of 5,000 gross tonnage and above but less than 10,000 gross tonnage.
D. Any ship of 10,000 gross tonnage and above.

(C) 23. How many projectiles shall be provided for line-throwing appliance as per LSA Code (International Life-Saving Appliance Code)?
A. Not less than 2.
B. Not less than 3.
C. Not less than 4.
D. Not less than 5.

(C) 24. When the dredging boat is in operation, it becomes a _____ vessel.
A. not under command
B. disabled
C. hampered
D. lousing

(D) 25. 船舶遇難信號中，下列何者為以無線電話發送之信號？
A. DANGER
B. HELP
C. DISTRESS
D. MAYDAY

(B) 26. 圖示信號旗所代表之字母依規定全名(code word)是: 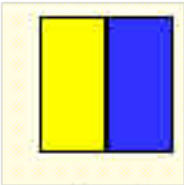
A. Foxtrot
B. Kilo
C. November
D. Yankee

(B) 27. 船舶發出遇險呼叫後接收來自岸台之中頻（MF）數位選擇呼叫（DSC）之確認，此時應利用下列何種頻率進行後續通話？
A. 1182 KHz
B. 2182 KHz
C. 3182 KHz
D. 4182 KHz

(B) 28. 船舶在艉旗桿升起的是何種旗？
A. 港口國國旗
B. 船籍國國旗
C. 檢疫旗

D. 領港旗

(C) 29. When the Master _____ over the watch to the duty officer, he should say: You have the watch now.
A. taking
B. delivering
C. handing
D. relieving

(D) 30. A drill will be held to let the passengers _____ with their assembly station, with their life-saving equipment and with emergency procedures.
A. familiar themselves
B. familiarity themselves
C. family themselves
D. familiarize themselves

(D) 31. MAYDAY was transmitted and _____ by coast radio station.
A. acquired
B. accept
C. acception
D. acknowledged

(A) 32. 當遇險船舶收到海岸無線電台數位選擇呼叫之遇險確認後，應立即進行後續之遇險通信，此時MAYDAY應發送多少次？
A. 1
B. 2
C. 3
D. 4

(D) 33. Bob-cat means a mini-_____ with push-blade used for the careful distribution of loose goods in cargo holds of bulk carriers.
A. conveyor
B. belt
C. transfer
D. caterpillar

(C) 34. Fishing gear had _____ my propellers.
A. around
B. circulated
C. fouled
D. covered

(D) 35. 某船拋錨後晚間遇暴風雨而走錨。天亮後發現雙錨相纏而無法起錨，船長不得不請求「拖船」幫助，拖船要求懸掛信號旗以資辨識。若你是當值船副，試問應指示當值船員懸掛下列那個「單字母」旗（信）號？
A. T
B. U
C. Y
D. Z

(C) 36. 某船員因情感問題，於船舶離開防波堤後跳入大海，船上同仁立即通知駕駛台。若你是當值船副，應立即懸掛下列那個「單字母」之信號旗以通知附近船舶並請求幫助？
A. A

B. D
C. O
D. W

(D) 37. 船舶利用數位選擇呼叫（DSC）設備發送遇險呼叫，在任何情況下，下列何項資料不被選定輸入？
A. 遇險原因
B. 遇險位置
C. 遇險時間
D. 船舶型式

(C) 38. WARNING . You are _____ into danger.
A. sailing
B. navigating
C. running
D. proceeding

(C) 39. Compatibility（of good）indicates whether _____ goods can be safely stowed together in one cargo space or in adjacent hold.
A. various
B. same
C. different
D. associated

(B) 40. When the draft of a ship fore and aft are the same, is termed “Even _____”.
A. Draft
B. Keel
C. Depth
D. Clearance