108年第一次交通部航海人員測驗【301】一等船副【000003】船舶通訊與航海英文

(D) 1. 搜救用雷達應答機(SART)，必須配合何種頻帶之雷達才能使用？
A. L
B. M
C. S
D. X

(A) 2. 使用信號彈時，指導有遇險人員或船員的小艇，且此處登岸極度危險之信號，下列何者為正確表示方法？
A. 發射紅光星鏃
B. 發射綠光星鏃
C. 發射橙光星鏃
D. 發射黃光星鏃

(C) 3. By SMCP, choose one of the following sentences for expressing ”Vessel requires pilotage in position _____.”
A. “I need pilot service - my position _____”.
B. “I want pilot service - my position _____”.
C. “I require pilot service - my position _____”.
D. “I wish to be assisted by pilot - my position _____”.

(A) 4. The anchor is already _____ and only three shackles are left to come in. The vessel will leave the anchorage soon.
A. aweigh
B. away
C. dropped
D. plunged

(A) 5. _____ acquires positions allowing for the courses and speed of the ship and the effects of wind, currents and tidal streams.
A. Estimated position
B. Running fix
C. fix
D. Dead reckoning

(C) 6. Which of the following position-finding techniques is the most accurate and reliable?
A. Estimated position
B. Running fix
C. Fix
D. Dead reckoning

(D) 7. Crewmember will process the waste paper or rags on board, which machine will be applied to?
A. Windlass
B. Bilge tank
C. Oil water separator
D. Incinerator

(A) 8. Which of the following tanks are defined as self-supporting tanks in IGC Code (International Gas Carrier Code)?
A. Independent tanks.
B. Membrane tanks.
C. Semi-membrane tanks.

D. Integral tanks.

(A) 9. If your ship needs quarantine inspection, which international code of ensign shall be hoisted?
A. QUEBEC
B. PAPA
C. HOTEL
D. BRAVO

(A) 10. Please refer to the attached sextant figure, the part that marked 「E」is:

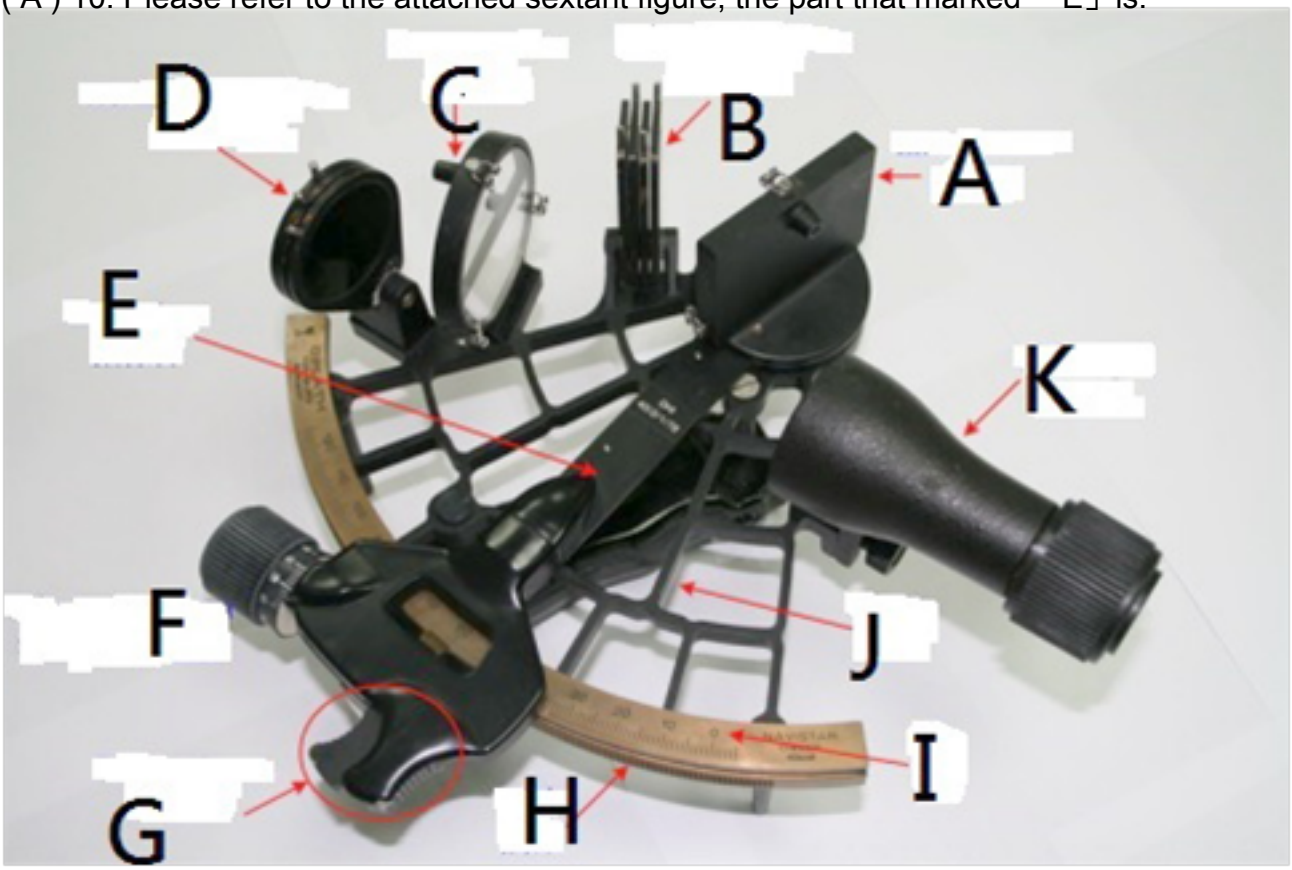

A. Index arm
B. Micrometer drum
C. Release lever
D. Limb

(D) 11. Freeboard is measured from the upper edge of the _____ .
A. bulwark
B. gunwale bar
C. sheer strake
D. deck line

(B) 12. A: What shall I do with the passes after they have been used? B: You must collect all the shore passes and hand them back to me before ship's departure. Question: What should be returned to the immigration before ship's departure?
A. The Seaman's Books
B. The shore passes
C. The port clearance
D. The permit to unload

(A) 13. 有關SART之電池容量，依公約規定於應答時可維持多少小時？
A. 8

B. 10
C. 12
D. 14

(C) 14. 摩爾斯碼信號「－－･･･(劃、劃、點、點、點)」，代表何信號？
A. 2
B. 3
C. 7
D. 23

(B) 15. 摩爾斯碼信號「－－－－･(劃、劃、劃、劃、點)」，代表何信號？
A. 6
B. 9
C. 14
D. 41

(B) 16. 圖示信號旗所代表之字母依規定全名(code word)是: 
A. Mike
B. Sierra
C. Echo
D. Papa

(B) 17. 圖示信號旗所代表之字母依規定全名(code word)是: 
A. Tango
B. Whiskey
C. Charlie
D. Juliett

(C) 18. Vessel has problems with her manoeuvrability due to malfunction. Please explain what the situation the vessel has encountered.
A. “I am a hampered vessel.”
B. “I am not under command.”
C. “I am manoeuvring with difficulty”
D. “I am obstructed in my manoeuvrability.”

(D) 19. By SMCP, choose one of the following sentences for expressing ”Traffic must proceed carefully.”
A. “You must proceed with care.”
B. “You must navigate carefully.”
C. “You must proceed carefully.”
D. “You must navigate with caution.”

(D) 20. What is the term that can be used to describe the length of 15 fathoms for a chain cable?
A. Mile
B. Yard
C. Furlong

D. Shackle

(D) 21. A clearly marked way in the vessel which has to be followed in case of an emergency. We called it as:
A. Run away passage
B. Safety passage
C. Emergency transit
D. Escape route

(D) 22. A: How many tugs must I take? B: You must take two tugs according to Port Regulations. Question: The instruction is according to _____.
A. Collision Avoidance Rules
B. ISM Code
C. Pilotage Act
D. Port Regulations

(C) 23. 「摩爾斯碼信號(The Morse symbols)」係由固定「短」「長」的「點(dot)」與「劃(dash)」之「音頻」或「可見光信號」搭配，組成為不同符號，數字或意義。試問信號與信號間，例如「boy」中的「b與o」或「o與y」之間的時間間隔，依規定是多少「時間單位」？
A. 一
B. 二
C. 三
D. 四

(B) 24. 「國際信號規則（ICS）」之規定，配合「單字母（Single letter）」信號組合而成之「單字母附輔助信號」代碼信號組，則「A200」表示何種意義？
A. Altitude 20 meter
B. Azimuth or Bearing 200
C. Altometer 200 ft.
D. Ampere 200

(D) 25. 「國際信號規則（ICS）」之規定，配合「單字母（Single letter）」信號組合而成之「單字母附輔助信號」代碼信號組，則「D100912」表示何種意義？
A. 2010年09月12日
B. 2010年12月09日
C. 2012年10月09日
D. 2012年09月10日

(C) 26. 單字母信號的意義“I wish to communicate with you.”（我希望與你通訊）的國際信號代碼是：
A. G
B. M
C. K
D. L

(A) 27. 在摩斯手旗通訊中，下列何者為表示發送台的信號發完時的最後信號？
A. $\overline{\text{AR}}$
B. R
C. $\overline{\text{TTTT}}$
D. $\overline{\text{AA}}$

(B) 28. 國際海事衛星（INMARSAT）系統，於大西洋區計有幾顆衛星在運作？
A. 1
B. 2
C. 3
D. 4

(C) 29. 旗號通訊中，表示「你的信號有問題，請檢查後重發」的程序信號是：
A. YQ
B. YZ
C. ZQ
D. ZL

(C) 30. 於摩斯碼（Morse Code）中，「劃（Dash）」的長度是多少個時間單位？
A. 1
B. 2
C. 3
D. 4

(A) 31. Broken Stowage is the term used to express the space which is lost and _____ by cargo or between packages in stowage.
A. unoccupied
B. occupied
C. controlled
D. uncontrolled

(A) 32. 搜救雷達詢答機（SART）在雷達顯示器上出現十二點狀，若由中心向外算，則何點才是真正SART之位置？
A. 第一點
B. 第四點
C. 第八點
D. 第十二點

(C) 33. 在使用特高頻無線電話時，如聽到遇險呼叫，下列何者為正確的措施？
A. 減低功率繼續發送
B. 增強功率展開呼叫
C. 停止發送並保持「守聽」
D. 不理會

(B) 34. 應急指位無線電示標（EPIRB）主要用於何處以達遇險通報之目的？
A. 陸上
B. 海上
C. 空中
D. 水下

(D) 35. “Wreck over which the exact depth is unknown, but which is considered to have a safe clearance at the depth shown”- it will be marked in the chart as:

A. 

B. 

C.

D.

(C) 36. When two power-driven vessels are meeting on reciprocal or near reciprocal courses, so as to involve risk of collision, which action is the best and correct?
A. The big ship shall stop her engine.
B. The small ship shall stop her engine.
C. Each shall alter her course to starboard.
D. Each shall alter her course to port.

(C) 37. The term “_____” is a word to indicate how many tons of cargo a vessel can load or carry.
A. Gross tonnage
B. full loaded displacement
C. Deadweight
D. Bale cubic

(C) 38. 船舶利用INMARSAT-C發送遇險之「電報」，此電報的優先等級為何？
A. 1
B. 2
C. 3
D. 4

(D) 39. The required number of dual _____ nozzles are on board, and each fire hose together with any necessary fittings and tools kept ready for use in a conspicuous position near water service hydrants or connections.
A. usage
B. alternatives
C. selection
D. purpose