108年第一次交通部航海人員測驗【601】二等船副【000015】船舶通訊與航海英文概要

(C) 1. 圖列國際信號旗依規定其意義為:

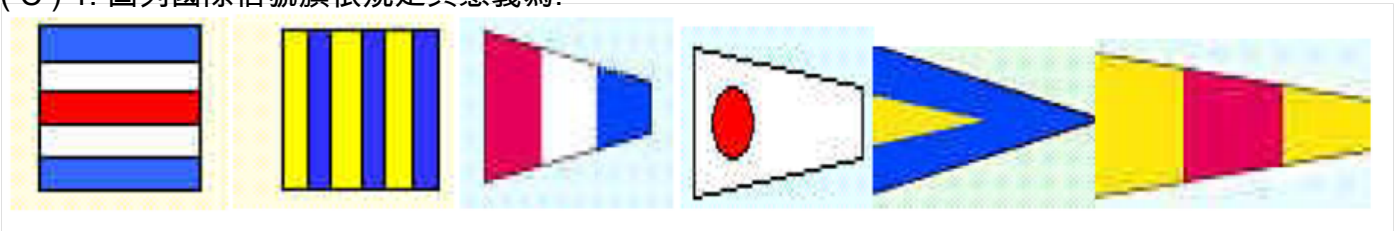

A. CG31代一0
B. CG31C0
C. CG3130
D. CG31代二0

(A) 2. 圖列國際信號旗依規定其意義為:

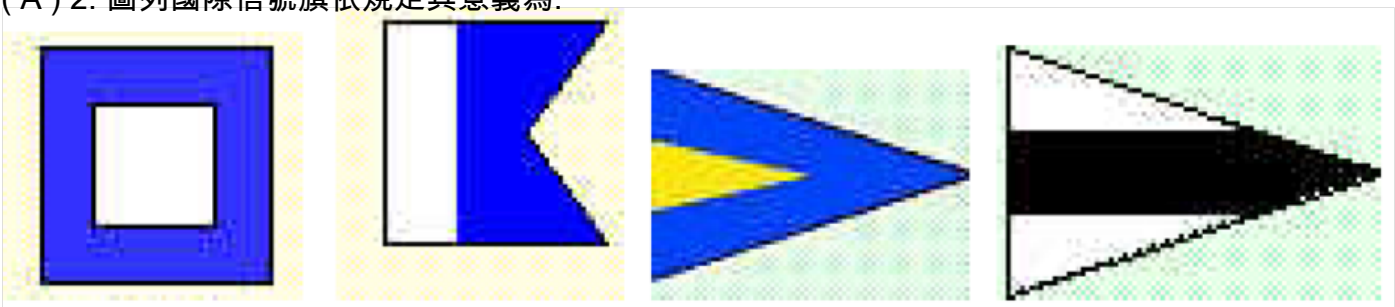

A. PAPP
B. PA代一代三
C. PAP代一
D. PAPA

(A) 3. “Stop in present position and wait for the pilot.” What is the meaning for ?
A. You should stop now.
B. Pilot boat has stopped.
C. Pilot is available at present.
D. You will be stopped by a pilot boat.

(B) 4. Headlines, forward and after springs have been _____. The ship is about to leave the berth.
A. fasten
B. let go
C. deployed
D. broadcasted

(B) 5. The _____ onboard the ship is not operational because the water cannot come out to extinguish the fire.
A. foam extinguisher system
B. sprinkler system
C. chemical extinguisher system
D. fire damper system

(D) 6. The function of “Binoculars” is:
A. To measure the density of seawater
B. To measure the heeling degrees of the ship
C. For over look

D. For lookout

(B) 7. You are proceeding in fog and hear one prolonged blast every two minutes coming from ahead by a vessel approaching, which you have been tracking on your ARPA and know that there is a risk of a close quarter situation. What would be considered the appropriate action you should take?
A. You should take an alteration of course to port in ample time.
B. You should reduce to a minimum manoeuvring speed, navigate with extreme caution and keep your engines ready to stop.
C. You should alter course 15 degrees to starboard.
D. You should make a series of small alteration to starboard.

(B) 8. 船舶以聲光信號通信時，數字間的小數點，可以插入何種摩爾斯符號表示之？
A. STOP
B. AAA
C. DECIMAL
D. POINT

(D) 9. 依SOLAS公約規定，SART應在多少公尺深之水中，至少保持5分鐘不進水，下列何者正確？
A. 3
B. 5
C. 8
D. 10

(B) 10. A _____ means a vessel which has been destroyed, sunk or abandoned at sea.
A. platform
B. wreck
C. barge
D. lighter

(B) 11. 使用煙霧發出遇難求救信號，應用何色？
A. 紅色
B. 橘色
C. 黃色
D. 藍色

(C) 12. 下圖所示之國際信號旗為何？ 
A. P
B. T
C. X
D. F

(C) 13. 「摩爾斯碼信號」中，「—·—— (劃、點、劃、劃)」代表何信號？
A. K
B. F
C. Y
D. A

(A) 14. 「摩爾斯碼信號」中，「——· (劃、劃、點)」代表何信號？

A. G
B. H
C. J
D. L

(B) 15. Your position is ____ 050 degrees and distance 2 nautical miles from the lighthouse.
A. course
B. bearing
C. heading
D. rolling

(D) 16. What information could not be received from NAVTEX?
A. Weather forecasts.
B. Navigational warnings.
C. SAR (Search and Rescue) alerts.
D. Publications correction information.

(B) 17. You are going to _____ .
A. aground
B. run aground
C. run grounded
D. run grounding

(C) 18. 有關於天氣狀況「陣雨」，在航海日誌所用之英文為下列何者？
A. Haze
B. Rain
C. Showers
D. Thunder

(C) 19. 正常狀況下，所有經指派負責航行當值之甲級船員，在任何24 小時之期間內，最少應有多少休息時數？

【請閱讀下列文字，並回答連續五個問題】All persons who are assigned duty as officer in charge of a watch or as a rating forming part of a watch and those whose duties involve designated safety, prevention of pollution and security duties shall be provided with a rest period of not less than: 1.a minimum of 10 hours of rest in any 24-hour period; and 2.77 hours in any 7-day period. The hours of rest may be divided into no more than two periods, one of which shall be at least 6 hours in length, and the intervals between consecutive periods of rest shall not exceed 14 hours. Parties may allow exceptions from the required hours of rest in paragraphs mentioned above provided that the rest period is not less than 70 hours in any 7-day period.

A. 6小時
B. 7小時
C. 10小時
D. 14小時

(D) 20. 正常狀況下，所有經指派負責航行當值之甲級船員，在任何7 天之期間內，最少應有多少休息時數？
A. 每天至少11小時
B. 每天至少10小時
C. 80小時
D. 77小時

(B) 21. GMDSS系統中下列何種通信設備具有強化群呼(EGC)之功能？
A. HF+NBDP
B. INMARSAT-C
C. NAVTEX
D. VHF+DSC

(B) 22. 全球何種衛星系統，配置於太空中共有四顆，下列何者正確？
A. COSPAS-SARSAT
B. INMARSAT-B
C. GLONASS
D. GPS

(D) 23. 使用岸上救生器材時之聯絡信號時，發射綠色星鏃一枚，下列何者非其特殊意義之一？

A. 已掌握火箭索
B. 索尾滑車已固定
C. 索纜已固定
D. 停拉

(B) 24. 船舶遇險者對空之視覺信號中，國際信號代碼N代表何意義？
A. 未知
B. 否定
C. 確認
D. 回答

(B) 25. What is the clearance distance required by a vessel when navigating in the vicinity of a vessel engaged in mine clearance operations?
A. 500 meters.
B. 1,000 meters.
C. 1,500 meters.
D. 2,000 meters.

(D) 26. 「摩爾斯碼信號」中，字組words or group與字組間，例如「boy」與「girl」兩字間的間隔間隔，依規定是幾個「時間單位」？
A. 四
B. 五
C. 六
D. 七

(C) 27. 航行中船舶，所使用的一般無線電話，其頻帶下列何者正確？
A. MF
B. HF
C. VHF
D. UHF

(C) 28. 下列何種通信設備，利用L頻帶進行船對岸之遇險警報？
A. INMARSAT-B
B. INMARSAT-C
C. INMARSAT-E
D. INMARSAT-F

(D) 29. 翻譯：報告所看到的救生艇艘數。
A. Report the number of lifeboats sight.
B. Report the number of lifeboats at sight.
C. Report the number of lifeboats on sight.
D. Report the number of lifeboats in sight.

(D) 30. 單字母附輔助信號中，字母“L”聯接四個數字，係表示：
A. 速度（公里）
B. 速度（節）
C. 經度
D. 緯度

(A) 31. “A vessel is floating, not controlled and without a clearly determinable direction” is defined as _____.
A. adrift
B. dredging

C. sailing without power-driven
D. sailing with wind

(C) 32. 表示「本輪正在走錨」時，應懸掛何種單字母信號旗？
A. K
B. O
C. Y
D. Z

(C) 33. 定位信號係為易於探測遇險船舶或生存者之位置而發送，搜救雷達詢答機（SART）發射多少頻率的信號，可讓救助單位之雷達接收？
A. 3 GHz
B. 6 GHz
C. 9 GHz
D. 12 GHz

(B) 34. The situation of a great quantity of water pouring into cargo hold from a leak of hull is called _____?
A. Collision
B. Flooding
C. Listing
D. Grounding

(C) 35. This is _____ ocean-going vessel.
A. big
B. a
C. an
D. the

(A) 36. It’s not advisable to cut _____ the power supply.
A. off
B. of
C. from
D. away

(D) 37. No, I am not _____ anchor.
A. drag
B. dredger
C. dredge
D. dredging

(C) 38. You must anchor until the pilot _____.
A. has arrived
B. arrived
C. arrives
D. is arriving

(D) 39. 翻譯：海上搜救協調中心。
A. Rescue Control Centre
B. Relieve Control Centre
C. Relieve Co-operation Centre
D. Rescue Co-ordination Centre

(D) 40. A vessel is on even keel, which means that:
A. the draft is down by the head.
B. the draft is down by the stern.
C. the draft is listed by the head.
D. the draft of the head and the stern are the same.