108年第三次交通部航海人員測驗【301】一等船副【000003】船舶通訊與航海英文

(C) 1. 使用燈光摩爾斯信號時，指導有遇險人員或船員的小艇，且此處最適合登岸之信號，下列何者為正確表示方法？
A. ．— ．．
B. ．．．
C. — ．—
D. —— ．．

(D) 2. 摩爾斯碼信號「·——·(點、劃、劃、點)」，代表何信號？
A. Foxtrot
B. Golf
C. Juliett
D. Papa

(B) 3. 發布空襲警報時，繫泊基隆港碼頭，在裝卸貨之船舶應如何處置？
A. 立即離港
B. 暫停原處
C. 立即移靠內港碼頭
D. 立即駛往錨地自行下錨

(D) 4. By SMCP, choose one of the following sentences for expressing ”Danger!. Vessel is on a collision course with vessel to the West of her.”
A. “Advice: you are at risk of collision with vessel to the West of you.”
B. “Instruction: you are running into risk of collision with the vessel to the West of you.”
C. “Correction: danger of collision with the vessel West of you.”
D. “Warning: you are running into danger. Risk of collision with the vessel West of you.”

(C) 5. In order to make sure all the courses to be steered are accurate, the gyro steering repeater should be checked against the _____ after each change of course.
A. bearings
B. course recorder
C. magnetic standard compass
D. radar

(D) 6. The symbol listed below on the chart means:
A. Coral rock, not obstacle to navigation safety
B. Coral rock, obstacle to navigation safety
C. Sunk ship, not obstacle to navigation safety
D. Sunk ship, obstacle to navigation safety

(A) 7. The opening in the deck that leads the anchor cable outside the hull is the _____ .
A. hawse pipe
B. fall pipe
C. drop-pipe
D. spill pipe

(A) 8. By SMCP, choose one of the following sentences for expressing ”Vessel has had a collision with MV Ocean Uni.”
A. “I have collided with MV Ocean Uni.”
B. ”My vessel and MV Ocean Uni had a contact.”

C. “There has been a striking with MV Ocean Uni.”
D. ”My vessel has had a light impact with MV Ocean Uni.”

(C) 9. Which term below denotes the length of one tenth of a nautical mile?
A. Shackle
B. Fathom
C. Cable
D. mile

(B) 10. 搜救船的雷達PPI上，呈現SART的距離為7浬，若船速為25節，試求ETA(約幾分鐘)？
A. 15
B. 17
C. 19
D. 21

(C) 11. 使用信號彈時，指導有遇險人員或船員的小艇，且此處登岸極度危險，較佳登岸地點在遇險船的右側，則先垂直發射何色星鏃信號一枚，再向右側發射白色星鏃一枚？
A. 黃
B. 綠
C. 紅
D. 紫

(A) 12. 白天使用岸上救生器材時，表示已掌握火箭索之聯絡信號，係白旗一面或雙臂作何種動作？
A. 上下擺動
B. 左右擺動
C. 繞圈運動
D. 高舉不動

(D) 13. 在日間時，救生站或海上搜救單位對遇險船舶或人員，發出已看見你之信號，每隔1分鐘發射一次，包括聲音與光線（雷電閃光）多少個？
A. 連續閃光
B. 1
C. 2
D. 3

(C) 14. "Ease the rudder" means to _____ .
A. move the rudder slowly in the direction of the most recent rudder
B. bring the rudder amidships
C. decrease the rudder angle
D. steer the course which is your present heading

(C) 15. You serve on an oil tanker built before January 1 2016, and low flash point product oil was loaded on board. What level of oxygen content you must maintained in every cargo tank as per SOLAS?
A. Not more than 12% by volume.
B. Not more than 10% by volume.
C. Not more than 8% by volume.
D. Not more than 5% by volume.

(A) 16. What lights shall be exhibited by a vessel when not under command, making way through water at night?
A. Two all-round red lights in a vertical line, sidelights and a sternlight.

B. Three all-round red lights in a vertical line, sidelight and a sternlight.
C. Two all-round white lights in a vertical line, sidelights and a sternlight.
D. Three all-round white lights in a vertical line, sidelights and a sternlight.

(D) 17. A vessel which through some exceptional circumstance is unable to manoeuvre as required by COLREG and is therefore unable to keep out of the way of another vessel, she is:
A. Power-driven vessel
B. Sailing vessel
C. Hampered vessel
D. Vessel not under command

(B) 18. What size of vessel when at anchor shall switch on her deck lights to illuminate her decks at night as required by CLOREGS?
A. A vessel of 50 meters and more in length.
B. A vessel of 100 meters and more in length.
C. A vessel of 150 meters and more in length.
D. A vessel of 200 meters and more in length.

(A) 19. A: The cargo block of the derrick was broken due to the carelessness of the workers. B: We'll ask the winchmen to operate the machine according to the regulations. Question: Why was the cargo block broken?
A. Owing to the rough handling.
B. Due to the negligence of the sailor.
C. Because of the workers operate it quickly.
D. Because of the workers are not skilled in handling.

(C) 20. What kind of problems does a ship would have if its gravity center was above the transverse metacenter?
A. Shearing force
B. Hogging
C. Stability
D. Sagging

(D) 21. 船舶遇難信號中，下列何者為以旗號顯示之信號？
A. SOS
B. HELP
C. SC
D. NC

(A) 22. 圖示信號旗所代表之字母依規定全名(code word)是: 
A. Foxtrot
B. Hotel
C. Juliett
D. Papa

(B) 23. 圖示信號旗所代表之字母依規定全名(codeword)是:
A. Charlie
B. Golf
C. Sierra
D. X-ray

(A) 24. 「國際信號規則（ICS）」之規定，配合「單字母（Single letter）」信號組合而成之「單字母附輔助信號」代碼信號組，則「C200」表示何種意義？
A. Course 200
B. Certificate 200
C. Computer 200
D. Correct Course 200

(A) 25. The “Flinder’s Bar” is used for: _____.
A. Magnetic compass
B. Radio direction finder
C. Sextant
D. Container lashing

(C) 26. Restricted area means a deck, space, area etc., in vessels, where for safety reasons, entry is only _____ for authorized crew members.
A. allowance
B. granted
C. permitted
D. proved

(D) 27. Boarding speed means the speed of a vessel _____ to that of a pilot boat at which the pilot can safely embark/disembark.
A. intend
B. steering
C. refer
D. adjusted

(B) 28. 衛星輔助搜救系統（COSPAS-SARSAT）的地面終端台，其英文簡縮字為何？
A. MCC
B. LUT
C. RCC
D. SUT

(D) 29. 國際海事衛星（INMARSAT）通信系統之運轉中心其名稱為何？
A. 網路協調站（NCS）
B. 任務管制中心（MCC）
C. 海岸衛星台（CES）
D. 網路作業中心（NOC）

(C) 30. 利用特高頻（VHF）進行船舶間通話時，下列何種頻道為第一優先使用？
A. 2
B. 4
C. 6
D. 8

(D) 31. 依據我國國際海事衛星行動業務識別碼(INMARSAT Mobil Number)之指配原則，問INMARSAT-C型通信類別之起始碼為何？
A. 1
B. 2
C. 3
D. 4

(B) 32. 強化群呼（EGC）是屬於下列那一個系統？
A. 輔助搜救衛星
B. 國際海事衛星
C. 氣象導航衛星
D. 觀測衛星

(C) 33. 於日間，用白旗一面作水平運動，然後將該白旗插於地上，並另舉一面白旗指向所指明之方向，來指導載有遇險船員或人員的小艇，其意義為何？
A. 最佳登岸地點在所指之方向
B. 此處為最佳登岸地點
C. 此處登岸極度危險，較好的登岸地點在所指之方向
D. 此處登岸極度危險，但無較佳的登岸地點

(D) 34. 國際海事衛星，其行動電話號碼（IMN）共有幾個碼？
A. 6
B. 7
C. 8
D. 9

(D) 35. 下列何者不是我國港口對於船舶無線電管制規定的依據來源？
A. 商港法
B. 國際商港港務管理規則
C. 船舶無線電台管理辦法
D. 海商法

(B) 36. 依GMDSS規定搜救雷達詢答機（SART）至少多久必須測試一次？
A. 半個月
B. 一個月
C. 三個月
D. 六個月

(A) 37. 船舶利用國際海事衛星（INMARSAT）進行海上通話，其電話代碼是：
A. 870
B. 871
C. 872
D. 873

(D) 38. Please refer to the chart as attached and answer the following three questions. The symbol at Q1 means:

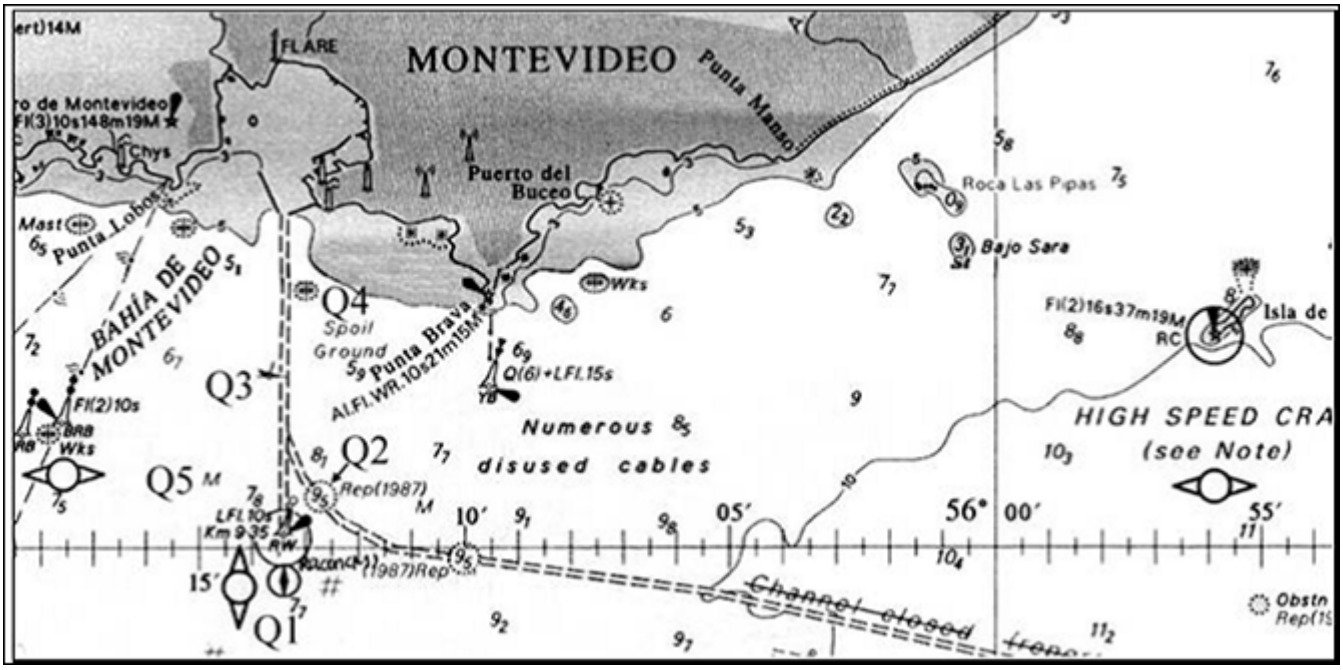

A. Quarantine anchorage
B. Reporting point
C. Radio pratique station
D. Pilot station

(C) 39. Please refer to the chart as attached and answer the following three questions. The symbol at Q2 means:

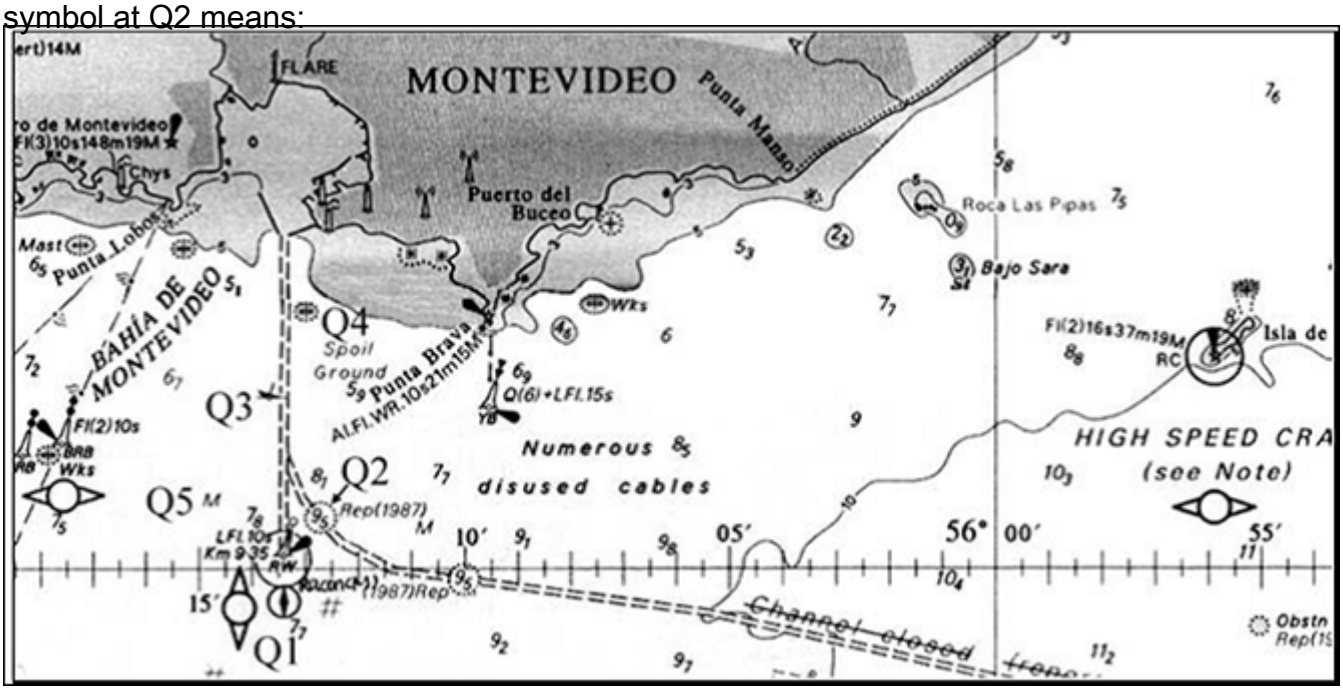

A. Obstruction or danger to navigation the exact nature of which is specified
B. Obstruction or danger to navigation the exact nature of which is not specified
C. Obstruction, depth know
D. Obstruction, depth un-know

(B) 40. Please refer to the chart as attached and answer the following three questions. The symbol at Q3 means:

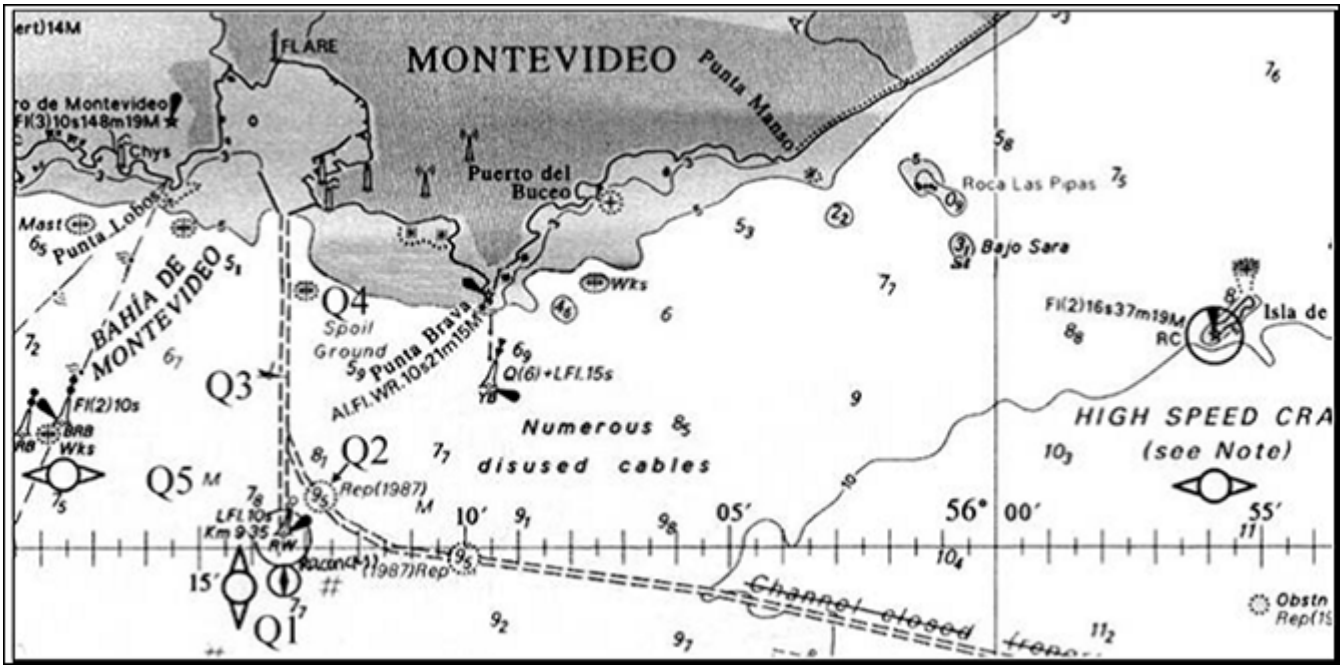

A. Light ship, with the mast visible at Chart datum
B. Wreck showing any part of hull or superstructure at the level of Chart Datum
C. Wreck, depth unknown, which is considered dangerous to surface navigation
D. Wreck, depth unknown, which is not considered dangerous to surface navigation