108年第三次交通部航海人員測驗【601】二等船副【000015】船舶通訊與航海英文概要

(A) 1. 下圖所示之國際信號旗為何？ 
A. F
B. H
C. J
D. P

(C) 2. 下圖所示之國際信號旗為何？
A. D
B. J
C. P
D. S

(C) 3. 圖列國際信號旗依規定其意義為: 

A. 15 Decimal Point 3 Miles
B. 15.3 Miles
C. 15.3 Meters
D. 15 3答應旗 M

(B) 4. 乙船依序跟隨甲船進基隆港，突然甲船速度變慢，並且懸掛 F 旗，其意義為何？
A. 我操作失靈
B. 我操作失靈，請與我通信
C. 我操作困難，請與我通信
D. 請避讓，我操作困難

(A) 5. 船舶燈號通訊時，以AA,AA,AA…燈號呼叫不知名之船，假如船舶收到此信號時，該以何種燈號回答？
A. T
B. R
C. E
D. K

(C) 6. _____ has the ship?
A. How many hatch
B. How much hatches
C. How many hatches
D. How much hatch

(A) 7. The situation of a vessel’s heading toward our bow means that:
A. This vessel is on opposite course.
B. This vessel is crossing of us.

C. This vessel is passing through us.
D. This vessel is overtaking of us.

(A) 8. 請參考所附六分儀構造圖，圖中標示為「E」之部位，其英文名稱為何？

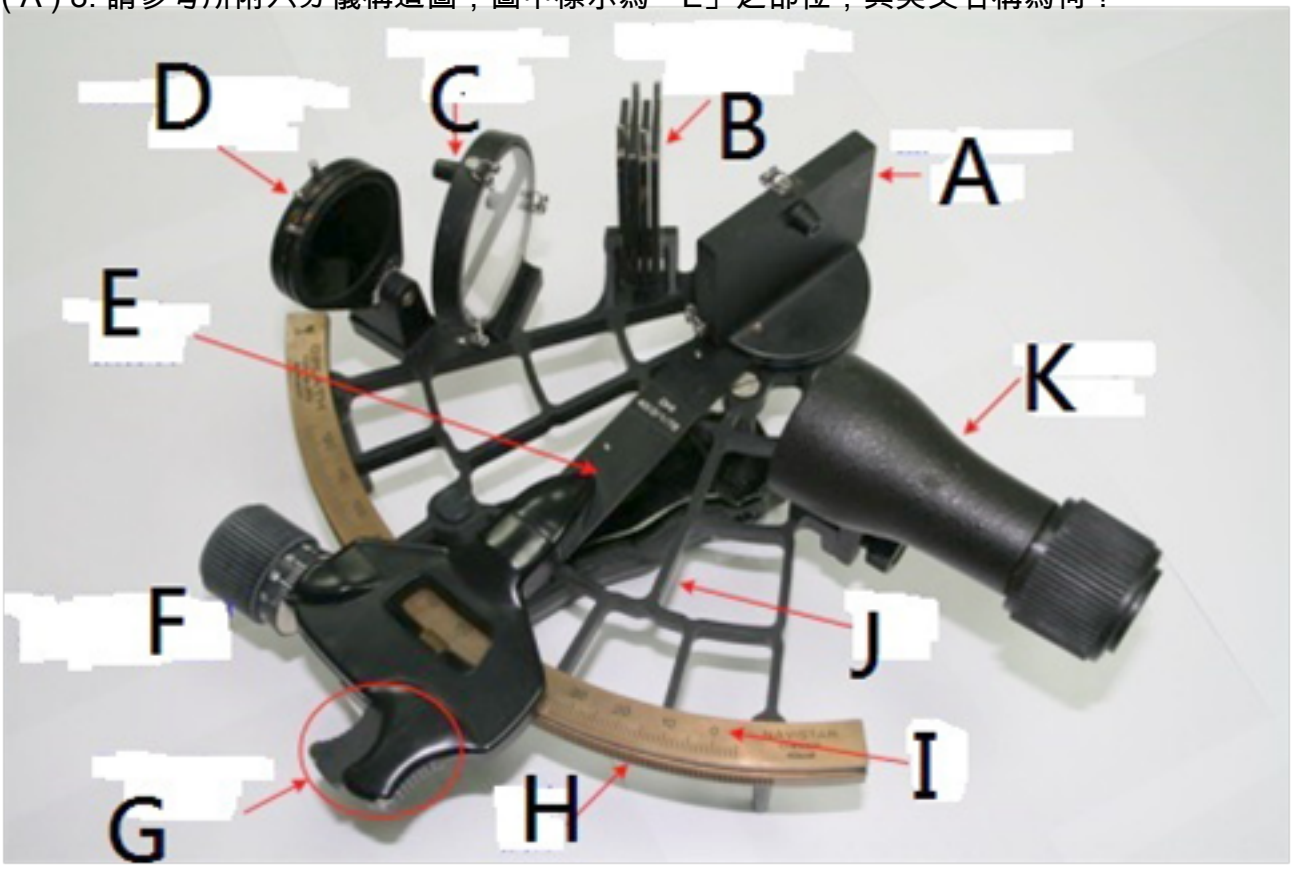

A. Index arm
B. Micrometer drum
C. Release lever
D. Limb

(A) 9. You sight a power driven vessel coming towards your ship from 45 degrees on your port side at a distance of 2 nautical miles and the bearing is not changing. What is the action you should take?
A. There is a risk of collision and the other vessel is not keeping clear therefore I should sound at least five short and rapid blasts to indicate my concern and alter course to starboard.
B. There is a risk of collision but I am the “stand-on” vessel so I shall keep my course and speed.
C. Coming vessel should keep the course and speed
D. There is no risk of a close quarter situation therefore I should maintain my course and speed.

(D) 10. You are the officer of the watch (OOW) and your master arrives at the bridge. When will the bridge con be transferred from you to the master?
A. Immediately after the master on the bridge.
B. 10 minutes after the master on the bridge.
C. 30 minutes after the master on the bridge.
D. After the master actually declares that he has the con of the bridge.

(C) 11. Which of the following sailings is the shortest distance between two points?
A. Parallel sailing.
B. Rhumb line sailing.
C. Great circle sailing.
D. Composite sailing.

(D) 12. 當SART與X-BAND雷達相距約多少浬以上時，則雷達螢幕上會出現12個點，下列何者正確？
A. 0.5
B. 1.0
C. 2.0
D. 3.0

(B) 13. A: Do you have the deratting certificate? B: Yes, here it is. It’s the exemption certificate issued just one month ago. Question: What was issued one month ago?
A. The clearance certificate
B. The exemption certificate
C. The health certificate
D. The certificate of freeboard

(B) 14. Our ship _____ with many modem navigational instruments.
A. equipped
B. is equipped
C. equips
D. has equipped

(B) 15. Your track is diverging from reference line.
A. The track of the vessel is paralled with the reference line.
B. The track of the vessel is not paralled with the reference line.
C. The track of the vessel is converging to the reference line.
D. The track of the vessel is the same as the reference line.

(C) 16. The vessel requires ____ because one of the crew members is injured.
A. fire fighting assistance
B. breathing apparatus
C. medical assistance
D. translation assistance

(B) 17. A：Kaohsiung port control, _____ I enter the fairway? Kaohsiung port control：Yes, you have permission to enter the fairway.
A. Can
B. May
C. Do
D. Have

(A) 18. 依國際公約規定，中高頻數位選擇呼叫(MF/HF+DSC)，應多久與海岸電台測試一次？
A. 一週
B. 二週
C. 一個月
D. 二個月

(A) 19. 下列何者不是無線電話的遇險呼叫必須說明之內容？
A. 船舶國籍及船舶種類
B. 遇險船位及遇險時間
C. 遇險性質及需要的援助
D. 船上狀況、海上及天氣狀況

(B) 20. 船舶通信依「國際信號規則(ICS)」之規定，試問「I am altering my course to port」，是下列何「單字母」之信號？

A. C
B. I
C. L
D. R

(A) 21. The light buoy in the position of 22°45’North and 125°35’West is ____. In other words, the light buoy is malfunctioning.
A. unlit
B. off station
C. missing
D. operating

(C) 22. After lett the anchor, the cables are coming ____ to prevent the movement of the ship.
A. slack
B. loose
C. tight
D. lax

(D) 23. Please ____ fore and aft mooring lines and prepare for departure.
A. make fast
B. deploy
C. walk back
D. single up

(C) 24. 航行警告電傳(NAVTEX)系統中，台灣附近海域哪座發報電台之發射代碼為P？
A. 上海
B. 香港
C. 基隆
D. 那霸

(C) 25. 船舶遇險者對空之視覺信號，下列何者不是正確的使用方式？
A. 火炬
B. 信號燈
C. 手旗
D. 信號旗

(A) 26. 飛機看見船舶遇險者發出之信號後，水平直飛不搖擺機翼，代表何意義？
A. 信號不明瞭
B. 前往援助
C. 指示航行方向
D. 無法執行

(A) 27. GMDSS系統中，目前何種通訊設備已停止運作，下列何者正確？
A. INMARSAT-A
B. HF+NBDP
C. NAVTEX Rx
D. MF+DSC

(C) 28. 於GMDSS系統信文中，下列何種通信設備之接收信文，格式裡的信文，結束符號為NNNN？
A. MF+DSC
B. HF+DSC
C. NAVTEX

D. VHF+DSC

(A) 29. 翻譯：緩慢地將泵啟動。
A. Start the pump slowly.
B. Start the pump speedily.
C. Start the pump easily.
D. Start the pump stably.

(D) 30. The fog is too thick. Do not _____ the Radar.
A. open
B. cover
C. switch on
D. switch off

(D) 31. In a crossing situation, a vessel engaged in fishing must keep out of the way of a vessel which is _____.
A. engaged in pilotage duty boat
B. sailing vessel
C. towing vessel
D. restricted in her ability to maneuver vessel

(D) 32. My ship is ready _____ for sailing.
A. cast
B. cast off
C. to cast of
D. to cast off

(C) 33. GMDSS系統中，地面近距離通信用於無線電話警報及安全通信，包括搜救之協調及現場之指揮通信，其頻率為多少MHz？
A. 156.6
B. 156.7
C. 156.8
D. 156.9

(D) 34. The vessel _____ there yesterday.
A. ground
B. grounding
C. aground
D. grounded

(D) 35. “_____” means on or towards the sheltered side of a ship.
A. Leeway
B. Leeside
C. Windward
D. Leeward

(C) 36. 可在小型船舶及遊艇上使用之衛星電話，下列何者不適用？
A. FBB-250
B. Isat Phone
C. INMARSAT-C
D. Iridium

(A) 37. 翻譯：由於風浪緣故，本船於1300 UTC減速。

A. Speed was reduced at 1300 UTC due to rough sea.
B. Barometer was reduced at 1300 UTC due to rough sea.
C. Course was altered at 1300 UTC due to rough sea.
D. Heading was altered at 1300 UTC due to rough sea.

(D) 38. I am _____ attack by pirates.
A. in
B. to
C. at
D. under

(A) 39. Moving of an anchor over the sea bottom involuntarily because it is no longer preventing the movement of the vessel defines _____.
A. dragging (of anchor)
B. dredging (of anchor)
C. weighing anchor
D. walking-back anchor

(A) 40. A buoy, marking the fairway in a channel, is painted in red-and-white vertical stripes defines _____.
A. fairway buoy
B. obstruction buoy
C. special-purpose buoy
D. junction buoy