(B) 1. 下圖所示之國際信號旗為何？
A. M
B. S
C. E
D. P

(A) 2. What is the _____ of the container ship? It is 8 meters.
A. freeboard
B. length
C. width
D. air draft

(B) 3. Pilot boat is approaching your vessel.
A. Pilot boat is leaving from the vessel.
B. Pilot is coming to the vessel.
C. Pilot boat is in the approaching channel.
D. Pilot boat has reached the vessel.

(C) 4. 請參考所附六分儀構造圖，圖中標示為「A」之部位，其英文名稱為何？



A. Horizon shade glasses
B. Horizon glass
C. Index mirror
D. Limb

(D) 5. What is the function of nautical almanac?
A. To provide the information of the landscape.
B. To provide the weather information.
C. To provide the navigational information.
D. To provide the information of celestial bodies.

(C) 6. 依SOLAS公約規定，船舶總噸位為多少以上，應配置搜救用雷達詢答機(SART)至少2組，下列何者正確？
A. 100
B. 300
C. 500
D. 1000

(D) 7. _____ means areas which cannot be scanned by the radar of the vessel because they are shielded by parts of its superstructure, masts, etc.
A. Unscannable area
B. Unseen area
C. Sheltered area
D. Blind sectors

(D) 8. We are going to the _____. The ship will prepare port anchor.
A. pier
B. navigation lane
C. open sea
D. anchorage

(D) 9. A _____ vessel is the ship which is not at anchor, made fast to the shore or aground.
A. stand-on
B. give-way
C. drifting
D. underway

(C) 10. 船舶向左舷或右舷傾斜之英文術語為：
A. Leeway
B. Leeward
C. List
D. Not under command

(B) 11. 船舶通信依「國際信號規則(ICS)」之規定，試問「I am taking in, or discharging, or carrying dangerous goods」，是下列何「單字母」之信號？
A. Z
B. B
C. M
D. U

(D) 12. 「摩爾斯碼信號」中，「··(點、點)」代表何信號？
A. X
B. T
C. N
D. I

(C) 13. 下圖所示之國際信號旗為何？ 
A. 代三旗
B. TWO
C. 代二旗
D. W

(B) 14. _____ means moving of an anchor over the sea bottom involuntarily because it is no longer preventing the movement of the vessel.
A. Dredging(of anchor)
B. Dragging (of anchor)
C. Weighing anchor
D. Walking out anchor

(A) 15. I should arrange for a competent surveyor to conduct a cargo condition survey.
A. A surveyor will inspect the cargo.
B. A surveyor will inspect the ship’s condition.
C. I shall inspect the cargo.

D. I shall inspect the ship’s condition.

(B) 16. Which of the followings is not a waypoint?
A. The point of change of course.
B. The point of reporting.
C. The point of change of speed.
D. End or beginning of sea passage.

(B) 17. You, the officer of the watch (OOW), are using ARPA (Automatic Radar Plotting Aid) as navigational aid. What speed you should input ARPA for collision prevention?
A. Ground speed.
B. Water speed.
C. Actual speed.
D. Either ground speed or water speed.

(A) 18. Please make sure the _____ are clear for evacuating all crew.
A. escape routes
B. elevators
C. lifts
D. gangways

(C) 19. A vessel is seen showing two balls shapes in a vertical line. What does this day time signal indicate?
A. A vessel engaged in fishing.
B. A vessel engaged in trawling.
C. A vessel not under command.
D. A vessel constrained by draught.

(B) 20. 無線電波頻率愈高，則下列何者正確？
A. 信號品質不受干擾
B. 受干擾愈少，信號品質愈佳
C. 受干擾愈大，電波耗損愈大
D. 電波耗損愈小

(B) 21. 無線電話通訊時，英文字母“C”的代字為何？
A. CHARLIA
B. CHARLIE
C. CHARLIO
D. CHARLIR

(D) 22. “Taiwan Strait” is famous for its _____ in the winter.
A. Typhoon
B. Cold front
C. SE monsoon
D. NE monsoon

(D) 23. Which term means the area or location where the event, e.g.an accident has happened?
A. Scand
B. Scena
C. Scenic
D. Scene

(C) 24. 於NAVTEX系統中，若其接收信文代碼為E，則下列何者正確？

A. 冰山報告
B. 航行警告
C. 氣象預報
D. 領航資訊

(C) 25. Owing to the existence of numerous telegraph _____, vessels will be fined if anchored.
A. chains
B. nets
C. cables
D. orders

(C) 26. Who is not the member of public affairs of the boarding party?
A. Immigration
B. Customs
C. P&Isurveyor
D. Quarantine

(D) 27. In Douglas swell scale , the “swell 6” is defined as:
A. rough swell
B. abnormal swell
C. heavy swell
D. very rough swell

(C) 28. 依無線電規則要求，裝設有MF/DSC設備之船舶，遇險與安全之DSC頻率為多少KHz？
A. 2174.5
B. 2182
C. 2187.5
D. 3023

(D) 29. _____ is the act of checking who of the passengers and crew members are present at assembly station by reading aloud a list of their names.
A. Digital call
B. Speaking call
C. Point call
D. Roll call

(A) 30. _____ means a crew onboard a ship is in charge of the observation of the navigation environment at sea for any potential hazards.
A. Look-out
B. Sailor
C. Pilot
D. Shipper

(D) 31. We will maintain our course and speed. You can _____ ahead of us.
A. come
B. alter
C. collide
D. pass

(C) 32. Occupational safety equipment will be _____ and available soon.
A. postponed
B. delayed

C. complete
D. canceled

(A) 33. The term of “landfall” means _____.
A. the first sighting of land when approached from seaward
B. land last sighted when vessel leaving from a port
C. the cliff of the coast land
D. the waterfall of the land

(B) 34. You are obstructing the fairway. You must _____ anchor.
A. warm up
B. heave up
C. give up
D. stand up

(A) 35. 「Obstruction danger to navigation, depth unknown」- it will be marked in the chart by:

A. 

B. 

C. 

D.

(D) 36. If there is sufficient sea room, alteration of _____ may be the most effective action to avoid a close-quarters situation.
A. speed or course
B. speed and course
C. speed alone
D. course alone

(D) 37. The work of _____ ensures that mariners have aids to navigation which will meet their needs both now and in the future.
A. ICBC
B. WHO
C. WTO
D. IALA

(A) 38. 海事衛星通訊作業目前發射之衛星，稱為什麼衛星？
A. 同步衛星
B. 繞極衛星
C. 交替衛星
D. 轉速衛星

(B) 39. 中頻無線電話遇險、緊急、安全通訊及呼叫之頻率為多少KHz？
A. 500

B. 2182
C. 2290
D. 2412

(D) 40. _____ of goods indicates whether different goods can be safely stowed together in one cargo space or in adjacent hold.
A. Availability
B. Maintainability
C. Capability
D. Compatibility