113年第一次航海人員測驗【601】二等船副【000015】船舶通訊與航海英文概要

( A ) 1. 下圖所示之國際信號旗為何？

A. B
B. O
C. S
D. W

( A ) 2. 下圖所示之國際信號旗為何？ 

A. J
B. L
C. P
D. X

( A ) 3. 下圖所示之國際信號旗為何？

A. R
B. T
C. V
D. E

( D ) 4. 圖列國際信號旗依規定其意義為？

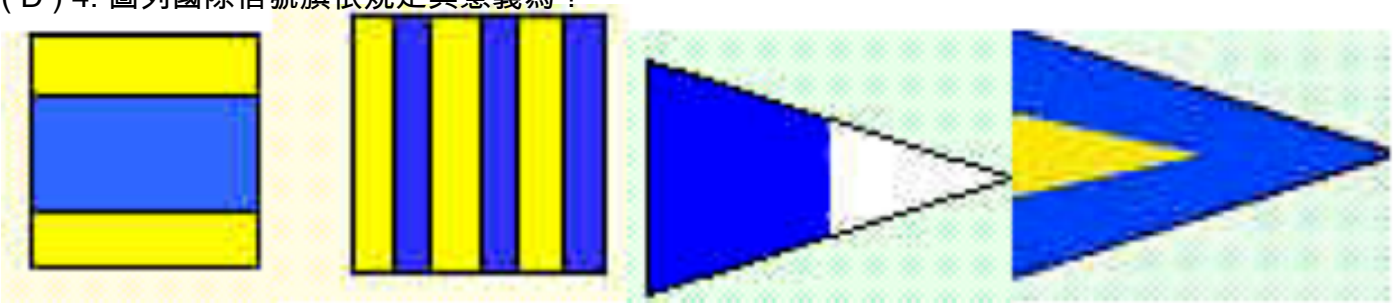

A. DG代二代一
B. DGG代一
C. DGGG
D. DGGD

( B ) 5. 圖列國際信號旗依規定其意義為？



A. A 3 0 代二
B. A 3 0 0
C. A 3 0 3
D. A 3 0代三

( C ) 6. _____ port anchor, one shackle in water.
A. Cast off
B. Throw
C. Let go
D. Put on

( B ) 7. Your vessel is approaching the entrance to a narrow channel. Which of the following actions provides the most appropriate instructions on how you should proceed?
A. Increase speed, keep a sharp lookout and keep to the starboard side of the fairway.
B. Reduce your speed and keep as near to the starboard side of the channel.
C. Reduce your speed and keep a sharp lookout.
D. Engine on standby ready to reduce your speed when required and stay on the port side of the fairway.

( B ) 8. The visibility is about one nautical mile and as officer of the watch (OOW) you visually see a vessel dead ahead on a reciprocal course coming out of the fog toward you. What action should you take?
A. Stop your vessel and change the fog signal to three prolonged blasts every two minutes until the vessel has passed.
B. Give one short blast, make a substantial alteration of course to starboard and continue sounding the fog signal.
C. Alter course to starboard and continue sounding the fog signal, but not sound one short blast as this is for clear visibility only.
D. Maintain your course and speed.

( C ) 9. Which of the following answers is not the main cause to abandon ships?
A. Grounding
B. Serious damage
C. Man overboard
D. Fire

( A ) 10. Which of the following factors is to be taken into account while the officer of the watch (OOW) acts as the sole lookout on bridge in daylight?
A. Traffic density.
B. Type of cargoes loaded.
C. Age of the officer of the watch (OOW).
D. Ship’s course and speed.

( C ) 11. _____ signifies that vessel has passed quarantine inspection and may enter port.

A. Freeboard
B. Freight
C. Pratique
D. Patent

( A ) 12. Complete the _____ before the loading starts since such a document is very important for cargo handling.
A. stowage plan
B. general arrangement
C. fire control plan
D. crew list

( C ) 13. _____ means a path of waterway in a channel, harbor or river that is navigable.
A. Highway
B. Freeway
C. Fairway
D. Hatchway

( A ) 14. 遇險之後從船上撤走船員和旅客之英文術語為：
A. Abandon vessel
B. GMDSS
C. SOS
D. Boarding

( C ) 15. SART為：
A. 事件現場
B. 海上助航標誌
C. 搜救雷達詢答機
D. 風暴中心的移動速度

( B ) 16. TSS為：
A. 分隔區
B. 分道通航制
C. 沿岸通航區
D. 航道中的強制速度

( D ) 17. 下列何者非國際避碰規則規定之船舶遇難信號？
A. 發出無線電報警報信號
B. 發出無線電話警報信號
C. 利用緊急指位無線電示標(EPIRB)發出遇險信號
D. 利用緊急無線電航行電傳(NAVTEX)發出遇險信號

( D ) 18. GMDSS系統中下列何種無線電設備採用2187.5KHz進行信文傳送？
A. UHF DSC
B. VHF DSC
C. HF DSC
D. MF DSC

( A ) 19. 如何發出「此處登岸極度危險，較佳登岸地點在指示之方向」之救生信號？
A. 垂直發射紅色星鏃信號一枚，並向較佳登岸地點發射白色星鏃一枚
B. 垂直發射白色星鏃信號一枚，並向較佳登岸地點發射紅色星鏃一枚
C. 垂直發射紅色星鏃信號一枚，並向較佳登岸地點發射綠色星鏃一枚
D. 垂直發射白色星鏃信號一枚，並向較佳登岸地點發射綠色星鏃一枚

( A ) 20. Vessel A wishes to overtake Vessel B. Which of the following descriptions is correct?
A. Vessel A is faster than Vessel B
B. The speed of Vessels A and B is identical
C. Vessel B is faster than Vessel A
D. Vessel B should sound one prolonged, one short, one prolonged and one short blast

( D ) 21. ____ course to 158 degrees to approach the pilot station.
A. Search
B. Resume
C. Off
D. Alter

( D ) 22. A short raised deck above the main deck at the bow is:_____
A. the after peak deck
B. the Bulkheads deck
C. the poop deck
D. the forecastle deck

( C ) 23. The symbol attached below on the chart means: 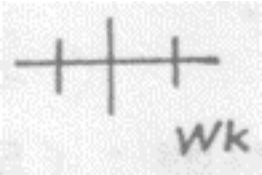

A. Coral rock, not obstacle to navigation safety
B. Coral rock, obstacle to navigation safety
C. Sunk ship, not obstacle to navigation safety
D. Sunk ship, obstacle to navigation safety

( C ) 24. The term "lee side" refers to the _____.
A. starboard side
B. port side
C. side of the vessel sheltered from the wind
D. side of the vessel exposed to the wind

( D ) 25. GMDSS船舶，下列何種編號為9碼之識別號？
A. IMO NO
B. SHIP NAME
C. CALL SIGN
D. MMSI

( A ) 26. 海上搜救單位在夜晚回答遇險人員，表示已看見你之信號為何？
A. 三個白色星鏃火箭
B. 三個紅色星鏃火箭
C. 三個綠色星鏃火箭
D. 二個紅色星鏃火箭

( B ) 27. 於單字母信號中，使用何字母代表操縱失靈，請與我通信(I am disable,please commumicate with me.)
A. P
B. F
C. I
D. W

( B ) 28. INMARSAT-C其通訊方式具有下列何種功能？
A. 儲存不傳達
B. 儲存再傳達
C. 僅能儲存
D. 僅能傳達

( B ) 29. 無線電話通訊時，英文字母“J”的代字為何？
A. JULIATT
B. JULIETT
C. JULIOTT
D. JULIRTT

( A ) 30. DSC遇險訊息之中繼，應當以下列何種相關的遇險及安全通信頻率來完成？
A. 無線電話
B. 有線電話
C. 無線電報
D. 航行警告

( A ) 31. For bulk carriers, who will be in charge of the loading / discharging daily progress and quantity？
A. Tallyman
B. Marine surveyor
C. Cargo Surveyor
D. Boarding inspector

( B ) 32. 船舶遇險且當船舶沈沒時，可自行浮離並自動作動的是下列那一種設備？
A. SSB
B. EPIRB
C. DSC
D. VHF

( A ) 33. 無線電話通訊常用語，“International Code of Signals” 其意義為：
A. 國際信號代碼
B. 國際拼音代碼
C. 國際明碼規則
D. 國際暗碼規則

( A ) 34. 使用VHF通信，如電文未能正確接收需請重複時，應說什麼？
A. Say again
B. Repetition
C. Correction
D. One more time



( C ) 35. 圖示信號旗，係表示何字母？
A. A

B. D
C. L
D. P

( D ) 36. When a vessel is in a head-on situation, it means that:
A. This vessel is crossing of us.
B. This vessel is passing through us.
C. This vessel is overtaking of us.
D. This vessel is on reciprocal course of us.

( A ) 37. I read you with signal strength _____.
A. barely perceptible
B. barely perceptibly
C. bare perceptible
D. bare perceptibly

( B ) 38. There has been a hydrographic instrument moored in the following position: _____ 260 degrees and distance 4 nautical miles from the northern breakwater. Please navigate with caution!
A. Course
B. Bearing
C. Compass
D. Azimuth

( A ) 39. 翻譯：船艏吃水10公尺。
A. Draft forward is 10 meters.
B. Draft aft is 10 meters.
C. Draft mid is 10 meters.
D. Draft underkeel is 10 meters.

( B ) 40. When should the anchor ball be hoisted?
A. The anchor is on deck
B. The anchor reaches the bottom
C. The anchor is aweigh
D. The anchor is clear