114年第四次航海人員測驗【304】電技員【000049】專業英文

(B) 1. When you are on duty-watch in the engine room, if any events encountered, what you will do on the engine logbook?
A. Not need write in the engine logbook.
B. To write in the engine logbook with signature in the logbook column headed with watch.
C. There are no necessary to write in, just remind to hand over engineer.
D. To choose most serious events recorded with signature in the logbook column.

(B) 2. 輪機日誌中，Fore Peak Tank 的中文意義，下列那一選項才正確?
A. 淡水櫃
B. 前尖櫃
C. 後尖櫃
D. 沉澱櫃

(B) 3. Chinese translated into English, Which of the following is appropriate?「修理需要多久?」
A. How does it long to repair?
B. How long will it take to repair it?
C. What time to repair it?
D. What time need to repair?

(C) 4. 不要跟隨我船。翻譯全文：_____
A. Proceed by yourself.
B. Go ahead and follow me.
C. Do not follow me.
D. You will follow me.

(D) 5. According to regulation 14 of MARPOL Annex VI, Since 1 January 2015 and after, How many percentage limited of Sulphur content while ships are operating within an Emission Control Area shall not exceed?
A. 1.50% m/m
B. 1.00% m/m
C. 0.50% m/m
D. 0.10% m/m

(B) 6. Report any accident which occurred during the voyage immediately upon arrival either by _____ or by _____ to the office.
A. telephone, e-mail
B. fax, e-mail
C. telephone, write letter
D. fax, write letter

(C) 7. Which device control the speed of main engine ?
A. Starting air system
B. Piston
C. Governor
D. Crankshaft

(B) 8. The tool of fig. is called:

A. packing
B. washer
C. casher
D. climper

(B) 9. If the water tubes of air cooler are leakage all of the following things may happen except _____.
A. cooling water will flow into the air box
B. charge air temperature will go down a few degrees
C. cooling water will flow out of the drain pipe
D. the engine should operate at a low load, if the leaking tubes can be plugged

(D) 10. The standard steel file has _____ cut into the working surface of the file.
A. Ceramic
B. Glass
C. Diamonds
D. Teeth

(C) 11. A _____ is designed to save the lives of on board people in case of emergency at sea.
A. fire Extinguisher
B. fire detector
C. lifeboat
D. steam spray

(B) 12. Adjustment of Fuel Injection Timing, translate to chinese is?
A. 噴油壓力之調整
B. 燃油噴射正時之調整
C. 燃油壓力調整
D. 噴油器檢查

(C) 13. In follow Fig. Item 3 is _____device?

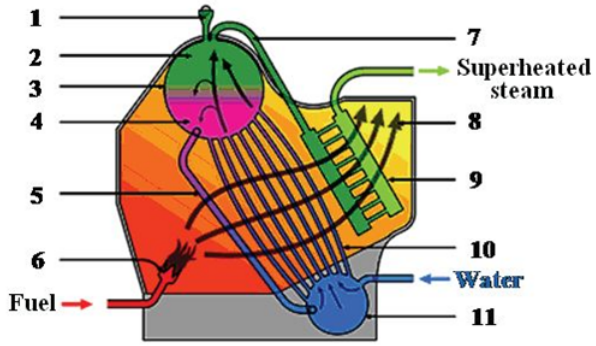

A. Feedwater drum
B. Downcomer tube
C. Steam drum
D. Water tube

(D) 14. In follow Fig. Item 9 is _____device?

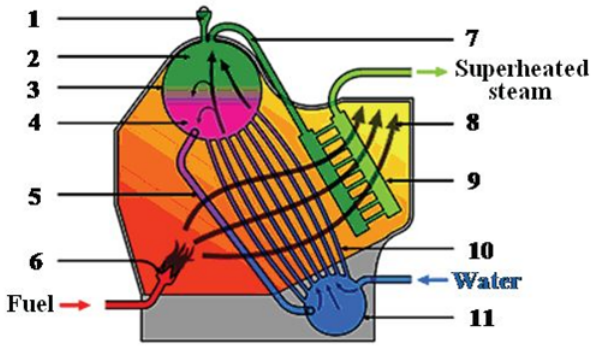

A. Feedwater drum
B. Downcomer tube
C. Steam drum
D. Superheater

(B) 15. Which type of open-end spanner is often with different-sized opening at each end.
A. Single-ended
B. Double-ended
C. Trible-ended
D. Unicle-ended

(A) 16. Ring spanners are often double-ended with_____ to improve access to the nut or bolt.
A. offset handles
B. upset handles
C. reset handles
D. hardset handles

(C) 17. A _____ is a mechanical screw apparatus used to hold the work piece in order to perform works.
A. Lathe
B. Washer
C. Vise
D. Clamp

(C) 18. Screw mainly used as a threaded fastener to _____ objects together.
A. cast
B. flighted
C. hold
D. floated

(D) 19. Old fashion lifeboats were operated with oars, which are slower and _____ wind conditions or manpower.
A. through up
B. departure on
C. release on
D. dependent on

(C) 20. _____ have to learn and practice the operation of lifeboats.
A. Passengers
B. Port authority
C. Crews
D. Class society

(C) 21. Most dry-chemical fire extinguishers have a built-in _____.

A. temperature gauge
B. volume gauge
C. pressure gauge
D. vacuum gauge

(A) 22. The _____ of operation are generally labeled on the fire extinguisher.
A. capacity and the instructions
B. fires and the instructions
C. capacity and the fires
D. capacity and the intends

(D) 23. 如圖所示為二行程柴油機作動定時圖，其圖中3顯示作動下列何者正確？

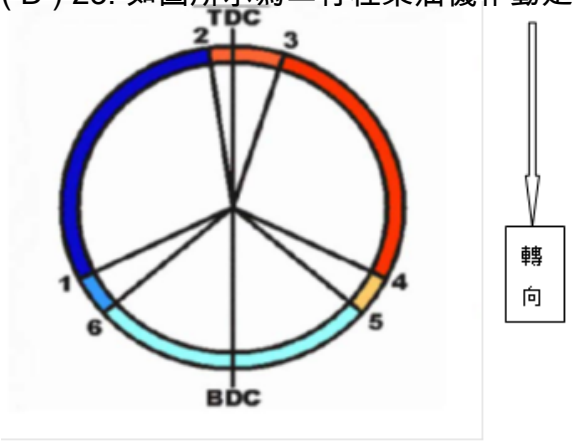

A. Scavenging port open
B. Scavenging port closed
C. Injection valve open
D. Injection valve closed

(C) 24. 如圖所示，本活塞其標示為1部位名稱為何？

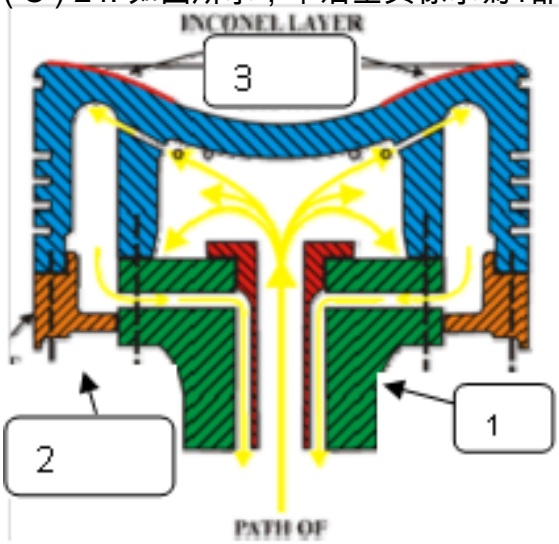

A. Piston crown
B. Piston skirt
C. Piston rod
D. Connecting rod

(D) 25. Overflow: Escape of oil or liquid from a tank because of a twofold condition as a result of overflowing, thermal expansion, change in vessel trim or vessel movement. 標題'Overflow'中文技術術語為 _____。
A. 駛向

B. 過熱
C. 應答
D. 溢流

(C) 26. It describes a vessel which is not at anchor, or made fast to the shore, or aground.
A. Underwriter
B. Underware
C. Underway
D. Undertaker

(C) 27. Safe speed means that speed of vessel to be stopped within a(n) _____ distance.
A. suitable
B. adequate
C. appropriate
D. accurate

(C) 28. Rule 16: Every vessel which is directed to keep _____ of the way of another vessel shall take early and substantial action to keep well clear.
A. up
B. low
C. out
D. clever

(B) 29. Getting ship's store and provisions aboard.中文譯文為： _____
A. 繫固吊桿及索具
B. 上物料及食品
C. 裝滿壓載艙及貨艙
D. 試驗舵機與汽笛

(A) 30. Cleared passage. 中文譯文為： _____
A. 通過航道。
B. 通過錨區。
C. 清理旅客。
D. 清潔部門。

(A) 31. The depth of water is not _____ in position 22-41-30N, 120-01-00 E.
A. sufficient
B. surrounded
C. sliced
D. stolen

(B) 32. _____ shoal reported in position 22-41-30N, 120-01-00 E.
A. Under
B. Uncharted
C. Enchanted
D. En-route

(D) 33. 圖書編號"NP 281(1)"指的是哪一個國家出版的航海圖書?
A. 美國
B. 台灣
C. 澳大利亞
D. 英國

(D) 34. According to Lloyd's' Register of shipping provisions: Where the installation of power and lighting circuits, the insulation between the electrode and ground insulation resistance of not less than how many MΩ?
A. 0.1
B. 0.5
C. 0.8
D. 1

(A) 35. 下列何者近似「動態響應」之原文？
A. Dynamic response
B. Dynamical reseting
C. Dynamical recovery
D. Dynamic fact

(A) 36. 下列何者近似「增壓機」之原文？
A. Turbocharger
B. Torque
C. Tolorence
D. Turbine

(A) 37. What is the inner diameter of the cylinder liner called?
A. Cylinder bore
B. Cylinder liner
C. Cylinder head
D. Cylinder crown

(A) 38. In order to maintain airtightness between the cylinder and the cylinder head, usually what parts to be fitted?
A. Seal gasket
B. Piston ring
C. O-ring
D. Rubber ring

(A) 39. 下列何者近似「主軸承」之原文？
A. Main bearing
B. Trust bearing
C. Pulley bearing
D. Mouse bearing

(A) 40. 下列何者較近似離心式泵「自吸作用」之原文？
A. Self-priming
B. Auto-priming
C. Pumping-priming
D. Other-priming